# Agniveervayu Intake 01 2027 31st March 2026

| | |
|---|---|
| Application Number | AV01270024243 |
| Hall Ticket No | HKA012733550002 |
| Candidate's Name | YASHWANTH K V |
| Test Center Name | iON Digital Zone iDZ Rajarajeswari Medical College and Hospital |
| Date of Exam | 31/03/2026 |
| Exam Time | 1:00 PM - 1:45 PM |
| Entry (Post Name) | Agniveervayu |
| Stream Applied | Other than Science Subjects |

Section : **English**

**Q.1 Read the sentence and select the option that is closest in meaning to the highlighted word as used in the sentence.**
**The child looked at the strange object with curiosity, eager to understand how it worked.**

**Ans**
✗ 1. Silence
✓ 2. Interest
✗ 3. Anger
✗ 4. Fear

Question ID : **4410091659319**
Option 1 ID : **4410096551620**
Option 2 ID : **4410096551619**
Option 3 ID : **4410096551618**
Option 4 ID : **4410096551617**
Status : **Answered**
Chosen Option : **2**

**Q.2 Fill in the blank with the appropriate word from the given options.**

**She will _____ the meeting tomorrow.**

**Ans**
✓ 1. lead
✗ 2. lid
✗ 3. lede
✗ 4. led

Question ID : **4410091023275**
Option 1 ID : **4410094044668**
Option 2 ID : **4410094044669**
Option 3 ID : **4410094044670**
Option 4 ID : **4410094044667**
Status : **Answered**
Chosen Option : **1**

**Q.3** **The sentence given below is divided into four parts. Select the part in which the error occurs.**
**Each of the students (A) have completed (B) the task (C) already (D).**

**Ans**
✗ 1. C
✗ 2. A
✗ 3. D
✓ 4. B

Question ID : **4410091663841**
Option 1 ID : **4410096568602**
Option 2 ID : **4410096568600**
Option 3 ID : **4410096568603**
Option 4 ID : **4410096568601**
Status : **Answered**
Chosen Option : **4**

**Q.4** **Convert the given sentence from Direct Speech to Indirect Speech.**
**Direct Speech: The boy said, "I will help you with your homework."**

**Ans**
✓ 1. The boy said that he would help me with my homework.
✗ 2. The boy said that he will help you with your homework.
✗ 3. The boy said that I would help you with my homework.
✗ 4. The boy said that he would help you with my homework.

Question ID : **4410091663867**
Option 1 ID : **4410096568704**
Option 2 ID : **4410096568705**
Option 3 ID : **4410096568706**
Option 4 ID : **4410096568707**
Status : **Answered**
Chosen Option : **1**

**Q.5** **Select the alternative from the given options that best expresses the same sentence in active voice.**

**This sweater cannot be worn by my son anymore.** 175

**Ans**
✗ 1. I cannot make my son wear this sweater anymore.
✗ 2. This worn out shirt cannot be worn by my son anymore.
✗ 3. Wearing this shirt is not possible by my son anymore.
✓ 4. My son cannot wear this sweater anymore.

Question ID : **441009478714**
Option 1 ID : **4410091870205**
Option 2 ID : **4410091870207**
Option 3 ID : **4410091870206**
Option 4 ID : **4410091870208**
Status : **Answered**
Chosen Option : **4**

HKA012733550002

**Q.6** **Select the option that is the opposite of the underlined word as used in the sentence.**
**The scientist was very <u>careful</u> when announcing the early results of the experiment.**

**Ans**
✔ 1. Negligent
✘ 2. Systematic
✘ 3. Analytical
✘ 4. Methodical

Question ID : **4410091659630**
Option 1 ID : **4410096552641**
Option 2 ID : **4410096552644**
Option 3 ID : **4410096552643**
Option 4 ID : **4410096552642**
Status : **Answered**
Chosen Option : **1**

**Q.7** **Select the most appropriate article to fill in the blank. If no article is needed, select 'No article required'.**

**Air quality is closely linked to _____ Earth's climate and ecosystems globally.**

**Ans**
✘ 1. an
✘ 2. No article required
✘ 3. a
✔ 4. the

Question ID : **441009382019**
Option 1 ID : **4410091493754**
Option 2 ID : **4410091493755**
Option 3 ID : **4410091493753**
Option 4 ID : **4410091493752**
Status : **Answered**
Chosen Option : **4**

**Q.8** **The sentence given below is divided into four parts. Select the part in which the error occurs.**
**She did not know (1) / where was the library (2) / so she asked (3) / a teacher for directions (4).**

**Ans**
✘ 1. 4
✘ 2. 1
✘ 3. 3
✔ 4. 2

Question ID : **4410091663962**
Option 1 ID : **4410096569073**
Option 2 ID : **4410096569070**
Option 3 ID : **4410096569072**
Option 4 ID : **4410096569071**
Status : **Answered**
Chosen Option : **2**

HKA012733550002

**Q.9** **The following sentence has been divided into four parts. One part contains a grammatical error. Identify the part with the error and select the option that rectifies it.**

**A. The committee recommended**
**B. that the project coordinator**
**C. submits the revised proposal**
**D. before the next review meeting.**

**Ans**
✔ 1. submit the revised proposal
✘ 2. before next review meeting.
✘ 3. that project coordinator
✘ 4. The committee recommending

Question ID : **4410091519816**
Option 1 ID : **4410096002594**
Option 2 ID : **4410096002595**
Option 3 ID : **4410096002593**
Option 4 ID : **4410096002592**
Status : **Answered**
Chosen Option : **3**

**Q.10** **Select the most appropriate option to rectify the grammatical error in the given sentence.**
**Each student must bring them notebook for the practical examination tomorrow.**

**Ans**
✔ 1. his or her
✘ 2. them
✘ 3. theirs
✘ 4. himself

Question ID : **4410091472606**
Option 1 ID : **4410095818289**
Option 2 ID : **4410095818292**
Option 3 ID : **4410095818290**
Option 4 ID : **4410095818291**
Status : **Answered**
Chosen Option : **2**

HKA012733550002

**Q.11 Identify the error in the given sentence.**

**(A) The research scholars has been analysing**
**(B) the ecological data collected from marine ecosystems**
**(C) to assess biodiversity changes**
**(D) caused by industrial activity.**

**Ans**
✗ 1. caused by industrial activity.
✗ 2. the ecological data collected from marine ecosystems
✓ 3. The research scholars has been analysing
✗ 4. to assess biodiversity changes

Question ID : **4410091498561**
Option 1 ID : **4410095919168**
Option 2 ID : **4410095919166**
Option 3 ID : **4410095919165**
Option 4 ID : **4410095919167**
Status : **Answered**
Chosen Option : **4**

**Q.12 Read the sentence and identify the correct noun form of the underlined verb.**
**The government's attempt to <u>regulate</u> online content sparked intense public debate**

**Ans**
✗ 1. Regulative
✗ 2. Regulatory
✗ 3. Regulating
✓ 4. Regulation

Question ID : **4410091659327**
Option 1 ID : **4410096551651**
Option 2 ID : **4410096551652**
Option 3 ID : **4410096551650**
Option 4 ID : **4410096551649**
Status : **Answered**
Chosen Option : **4**

**Q.13 Select the option that rectifies the error in the given sentence.**

**He had reached of the railway station before the train arrived.**

**Ans**
✗ 1. He had reached into the railway station before the train arrived.
✓ 2. He had reached the railway station before the train arrived.
✗ 3. He had reached in the railway station before the train arrived.
✗ 4. He had reached on the railway station before the train arrived.

Question ID : **441009351932**
Option 1 ID : **4410091374078**
Option 2 ID : **4410091374080**
Option 3 ID : **4410091374081**
Option 4 ID : **4410091374079**
Status : **Answered**
Chosen Option : **4**

HKA012733550002

**Q.14** **The first part of the sentence is in the correct position. The other parts (P, Q, R, S) are mixed up. Put them in the right order to make a meaningful sentence.**
**The teacher entered the**
**P: classroom and greeted**
**Q: the students with a**
**R: ready to begin the lesson**
**S: bright smile on a sunny morning**

**Ans**
✗ 1. S-P-Q-R
✓ 2. P-Q-S-R
✗ 3. Q-S-P-R
✗ 4. Q-P-S-R

Question ID : **441009213563**
Option 1 ID : **441009838327**
Option 2 ID : **441009838325**
Option 3 ID : **441009838326**
Option 4 ID : **441009838328**
Status : **Answered**
Chosen Option : **2**

**Q.15** **Select the wrongly spelt word.**

**Ans**
✗ 1. Resilient
✓ 2. Unsurp
✗ 3. Prevaricate
✗ 4. Magnanimous

Question ID : **44100910788**
Option 1 ID : **44100942936**
Option 2 ID : **44100942935**
Option 3 ID : **44100942937**
Option 4 ID : **44100942934**
Status : **Answered**
Chosen Option : **3**

**Q.16** **Select the option that best substitutes the highlighted phrase in the given sentence.**
**The police offered money given as a reward for information about the missing painting.**

**Ans**
✓ 1. bounty
✗ 2. thrifty
✗ 3. defunct
✗ 4. alloy

Question ID : **4410091600524**
Option 1 ID : **4410096321775**
Option 2 ID : **4410096321777**
Option 3 ID : **4410096321776**
Option 4 ID : **4410096321778**
Status : **Answered**
Chosen Option : **1**

HKA012733550002

**Comprehension:**

Read the passage and answer the questions that follow.

A school teacher's day starts much before the first class and continues even after the last bell rings. Before teaching, the teacher must plan lessons, choose materials, and think about the different learning needs of students. Once school begins, the teacher handles many roles—teaching lessons, guiding students, maintaining discipline, and listening to their problems, sometimes all in one hour. Teaching requires not only subject knowledge but also understanding students' emotions, because every student reacts differently to praise, warnings, or correction. Apart from teaching, teachers also have many administrative tasks. They check notebooks, keep records, attend meetings, and work with other teachers to ensure smooth learning. These tasks must be done carefully because even small mistakes can affect students later. Teachers also talk to students outside the classroom, offering advice during short conversations that can influence them deeply. By the end of the day, teachers think about what went well and what needs improvement. This cycle shows that teaching is a job of commitment, not just routine. Each day may look similar, but it is filled with continuous thinking and emotional effort.

**SubQuestion No : 17**

**Q.17 Why does a teacher's work begin before the first class?**

**Ans**

✗ 1. Because teachers like arriving early

✗ 2. Because teachers have to check uniforms

✓ 3. Because teachers need to plan lessons and prepare materials

✗ 4. Because students reach school early

Question ID : **4410091689112**
Option 1 ID : **4410096662890**
Option 2 ID : **4410096662893**
Option 3 ID : **4410096662891**
Option 4 ID : **4410096662892**
Status : **Answered**
Chosen Option : **3**

HKA012733550002

**Comprehension:**

Read the passage and answer the questions that follow.

A school teacher's day starts much before the first class and continues even after the last bell rings. Before teaching, the teacher must plan lessons, choose materials, and think about the different learning needs of students. Once school begins, the teacher handles many roles—teaching lessons, guiding students, maintaining discipline, and listening to their problems, sometimes all in one hour. Teaching requires not only subject knowledge but also understanding students' emotions, because every student reacts differently to praise, warnings, or correction. Apart from teaching, teachers also have many administrative tasks. They check notebooks, keep records, attend meetings, and work with other teachers to ensure smooth learning. These tasks must be done carefully because even small mistakes can affect students later. Teachers also talk to students outside the classroom, offering advice during short conversations that can influence them deeply. By the end of the day, teachers think about what went well and what needs improvement. This cycle shows that teaching is a job of commitment, not just routine. Each day may look similar, but it is filled with continuous thinking and emotional effort.

**SubQuestion No : 18**

**Q.18 Which task is part of a teacher's administrative work?**

**Ans**

✔ 1. Checking notebooks and keeping records

✘ 2. Giving homework only

✘ 3. Teaching only one class a day

✘ 4. Playing games with students

Question ID : **4410091689113**
Option 1 ID : **4410096662896**
Option 2 ID : **4410096662895**
Option 3 ID : **4410096662897**
Option 4 ID : **4410096662894**
Status : **Answered**
Chosen Option : **1**

HKA012733550002

**Comprehension:**

Read the passage and answer the questions that follow.

A school teacher's day starts much before the first class and continues even after the last bell rings. Before teaching, the teacher must plan lessons, choose materials, and think about the different learning needs of students. Once school begins, the teacher handles many roles—teaching lessons, guiding students, maintaining discipline, and listening to their problems, sometimes all in one hour. Teaching requires not only subject knowledge but also understanding students' emotions, because every student reacts differently to praise, warnings, or correction. Apart from teaching, teachers also have many administrative tasks. They check notebooks, keep records, attend meetings, and work with other teachers to ensure smooth learning. These tasks must be done carefully because even small mistakes can affect students later. Teachers also talk to students outside the classroom, offering advice during short conversations that can influence them deeply. By the end of the day, teachers think about what went well and what needs improvement. This cycle shows that teaching is a job of commitment, not just routine. Each day may look similar, but it is filled with continuous thinking and emotional effort.

**SubQuestion No : 19**

**Q.19 The word *"commitment"* in the passage means:**

**Ans**

✔ 1. a promise to stay dedicated and responsible

✘ 2. finishing work very quickly

✘ 3. working without following rules

✘ 4. doing something only when convenient

Question ID : **4410091689114**
Option 1 ID : **4410096662899**
Option 2 ID : **4410096662900**
Option 3 ID : **4410096662901**
Option 4 ID : **4410096662898**
Status : **Answered**
Chosen Option : **1**

HKA012733550002

**Comprehension:**

Read the passage and answer the questions that follow.

A school teacher's day starts much before the first class and continues even after the last bell rings. Before teaching, the teacher must plan lessons, choose materials, and think about the different learning needs of students. Once school begins, the teacher handles many roles—teaching lessons, guiding students, maintaining discipline, and listening to their problems, sometimes all in one hour. Teaching requires not only subject knowledge but also understanding students' emotions, because every student reacts differently to praise, warnings, or correction. Apart from teaching, teachers also have many administrative tasks. They check notebooks, keep records, attend meetings, and work with other teachers to ensure smooth learning. These tasks must be done carefully because even small mistakes can affect students later. Teachers also talk to students outside the classroom, offering advice during short conversations that can influence them deeply. By the end of the day, teachers think about what went well and what needs improvement. This cycle shows that teaching is a job of commitment, not just routine. Each day may look similar, but it is filled with continuous thinking and emotional effort.

**SubQuestion No : 20**

**Q.20 Which of the following is true according to the passage?**

**Ans**

✗ 1. A teacher's job ends when the last class finishes.

✓ 2. Teaching involves many roles and responsibilities throughout the day.

✗ 3. Teachers only need subject knowledge, not emotional understanding.

✗ 4. Students never need help outside the classroom.

Question ID : **4410091689115**
Option 1 ID : **4410096662902**
Option 2 ID : **4410096662904**
Option 3 ID : **4410096662903**
Option 4 ID : **4410096662905**
Status : **Answered**
Chosen Option : **2**

Section : **RAGA**

**Q.1 For a fixed perimeter, the area of a triangle is maximum when its shape is?**

**Ans**

✗ 1. Scalene

✗ 2. Right – angled

✓ 3. Equilateral

✗ 4. Isosceles

Question ID : **4410091643525**
Option 1 ID : **4410096490672**
Option 2 ID : **4410096490669**
Option 3 ID : **4410096490671**
Option 4 ID : **4410096490670**
Status : **Answered**
Chosen Option : **2**

HKA012733550002

**Q.2** **Select the option figure that will replace the question mark (?) in the figure given below to complete the pattern.**

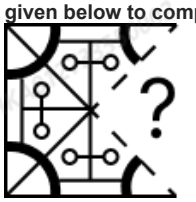

**Ans**

✗ 1.

✗ 2.

✗ 3.

✓ 4.

Question ID : **4410091763090**
Option 1 ID : **4410096952298**
Option 2 ID : **4410096952299**
Option 3 ID : **4410096952296**
Option 4 ID : **4410096952297**
Status : **Answered**
Chosen Option : **4**

HKA012733550002

**Q.3** **Three of the following four figures are alike in a certain way and thus form a group. Which figure DOES NOT belong to that group?**

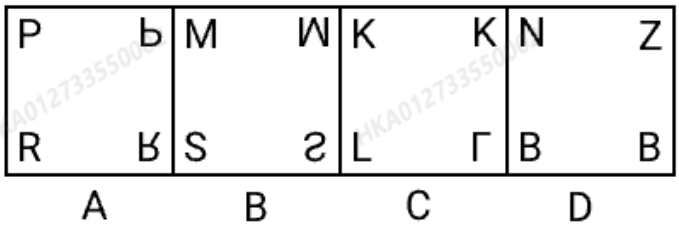


**Ans**
- ✗ 1. A
- ✗ 2. B
- ✓ 3. D
- ✗ 4. C

Question ID : **4410091775281**
Option 1 ID : **4410097005043**
Option 2 ID : **4410097005044**
Option 3 ID : **4410097005046**
Option 4 ID : **4410097005045**
Status : **Answered**
Chosen Option : **3**

**Q.4**

Find the angle of elevation of the Sun when the height of a pole is $\sqrt{3}$ times the length of the shadow of that pole.

**Ans**
- ✓ 1. 60°
- ✗ 2. 90°
- ✗ 3. 45°
- ✗ 4. 30°

Question ID : **441009280641**
Option 1 ID : **4410091090524**
Option 2 ID : **4410091090526**
Option 3 ID : **4410091090525**
Option 4 ID : **4410091090523**
Status : **Answered**
Chosen Option : **3**

HKA012733550002

**Q.5** **Based on the English alphabetical order, three of the following four-letter cluster pairs are alike in a certain way and thus form a group. Which is the one that does not belong to that group?**
**(Note: The odd one out is not based on the number of consonants/vowels or their position in the letter cluster.)**

**Ans**
✗ 1. CDI-FGL
✓ 2. KNQ-NQU
✗ 3. BMH-EPK
✗ 4. DAL-GDO

Question ID : **4410091766627**
Option 1 ID : **4410096966440**
Option 2 ID : **4410096966443**
Option 3 ID : **4410096966441**
Option 4 ID : **4410096966442**
Status : **Answered**
Chosen Option : **2**

**Q.6** **An analogue clock shows the time as 3:40. What is the smaller angle between the hour hand and the minute hand?**

**Ans**
✗ 1. 120°
✓ 2. 130°
✗ 3. 135°
✗ 4. 122°

Question ID : **4410091759353**
Option 1 ID : **4410096937585**
Option 2 ID : **4410096937588**
Option 3 ID : **4410096937587**
Option 4 ID : **4410096937586**
Status : **Answered**
Chosen Option : **1**

**Q.7** **The ratio of milk to water in a 143-litre mixture is 8:5. Find the quantity (in litres) of water to be added to the mixture in order to make the ratio 1:1.**

**Ans**
✗ 1. 34
✓ 2. 33
✗ 3. 25
✗ 4. 32

Question ID : **441009920154**
Option 1 ID : **4410093634589**
Option 2 ID : **4410093634587**
Option 3 ID : **4410093634588**
Option 4 ID : **4410093634590**
Status : **Answered**
Chosen Option : **2**

HKA012733550002

**Q.8** **The 2026 Commonwealth Games (XXIII Commonwealth Games) are scheduled to be held in which city?**

**Ans**
✔ 1. Glasgow, Scotland
✘ 2. Auckland, New Zealand
✘ 3. Victoria, Australia
✘ 4. Birmingham, United Kingdom

Question ID : **4410091764948**
Option 1 ID : **4410096959641**
Option 2 ID : **4410096959643**
Option 3 ID : **4410096959642**
Option 4 ID : **4410096959640**
Status : **Answered**
Chosen Option : **3**

**Q.9** What is the value of the following expression?

$$\left[\left(\frac{\sqrt{0.0625}}{0.2\overline{7} \div 0.8\overline{3}}\right) - \left(\frac{(0.6)^3 + (0.4)^3}{(0.6)^2 - 0.24 + (0.4)^2}\right)\right]^{-1}$$

**Ans**
✘ 1. 4
✘ 2. 0.25
✔ 3. -4
✘ 4. -0.25

Question ID : **4410091641140**
Option 1 ID : **4410096481713**
Option 2 ID : **4410096481715**
Option 3 ID : **4410096481714**
Option 4 ID : **4410096481716**
Status : **Not Answered**
Chosen Option : **--**

HKA012733550002

**Q.10 Identify the figure given in the options which when put in place of ? will logically complete the series?**

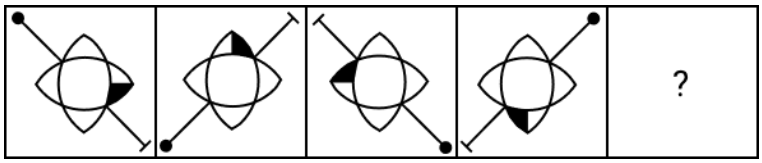


**Ans**

✔ 1.
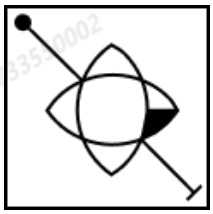

✘ 2.
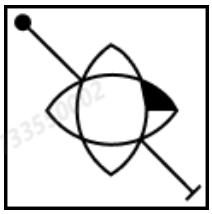

✘ 3.
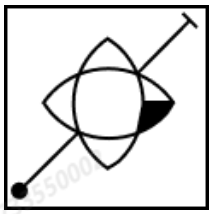

✘ 4.
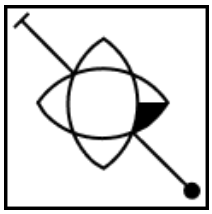

Question ID : **4410091773650**
Option 1 ID : **4410097005104**
Option 2 ID : **4410097005103**
Option 3 ID : **4410097005105**
Option 4 ID : **4410097005106**
Status : **Answered**
Chosen Option : **1**

HKA012733550002

**Q.11 The Quit India Movement slogan "Do or Die" was given by which of the following National Leaders?**

Ans
✗ 1. Bal Gangadhar Tilak
✗ 2. Subhas Chandra Bose
✗ 3. Dadabhai Naoroji
✓ 4. Mahatma Gandhi

Question ID : **4410091774929**
Option 1 ID : **4410096999200**
Option 2 ID : **4410096999198**
Option 3 ID : **4410096999199**
Option 4 ID : **4410096999197**
Status : **Answered**
Chosen Option : **1**

**Q.12 Select the correct mirror image of the given combination when the mirror is placed at 'PQ'; as shown below.**

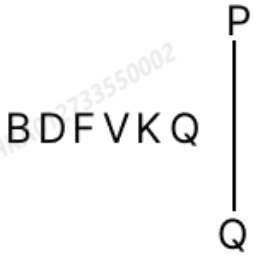


Ans
✓ 1. 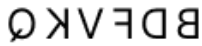
✗ 2.
✗ 3. 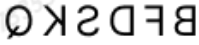
✗ 4. 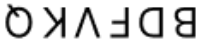

Question ID : **4410091769230**
Option 1 ID : **4410096976652**
Option 2 ID : **4410096976653**
Option 3 ID : **4410096976654**
Option 4 ID : **4410096976655**
Status : **Answered**
Chosen Option : **1**

HKA012733550002

**Q.13** **In the following triads, each group of letters is related to the subsequent one following a certain logic. Select from the given options, the one which follows the same logic.**

**MATH – AMTH – MAHT**
**KIND – IKND – KIDN**

**Ans**
✗ 1. COLD – OLDC – CODL
✗ 2. FAST – AFST – AFTS
✗ 3. TERM – ERMT – RMET
✓ 4. PINK – IPNK – PIKN

Question ID : **4410091766009**
Option 1 ID : **4410096964053**
Option 2 ID : **4410096964054**
Option 3 ID : **4410096964055**
Option 4 ID : **4410096964052**
Status : **Answered**
Chosen Option : **4**

**Q.14** **In a row of 40 persons facing north, Amit was 15th from the left and Bina was 20th from the right end of the row. If there were as many people to the left of Chetan as the number of people between Amit and Bina, what was Chetan's position from the right end of the row?**

**Ans**
✗ 1. 32nd
✗ 2. 36th
✗ 3. 37th
✓ 4. 35th

Question ID : **4410091669358**
Option 1 ID : **4410096588598**
Option 2 ID : **4410096588597**
Option 3 ID : **4410096588599**
Option 4 ID : **4410096588596**
Status : **Answered**
Chosen Option : **4**

**Q.15** **The multilateral naval exercise "Malabar", in which India participated in 2025, is conducted jointly with which group of countries?**

**Ans**
✗ 1. Russia, China, and Mongolia
✓ 2. United States, Japan, and Australia
✗ 3. France, United Kingdom, and Germany
✗ 4. Sri Lanka, Maldives, and Mauritius

Question ID : **4410091765267**
Option 1 ID : **4410096960922**
Option 2 ID : **4410096960920**
Option 3 ID : **4410096960921**
Option 4 ID : **4410096960923**
Status : **Answered**
Chosen Option : **2**

HKA012733550002

**Q.16** **A cylinder is surmounted by a cone at one end and a hemisphere at the other end. The common radius is 7 cm, the height of the cylinder is 6 cm and the total height of the structure is 29 cm. Find the volume (in $cm^3$) of the structure.**

$$Use\ \pi = \frac{22}{7}$$ 1550

**Ans**

✔ 1. 2464

✘ 2. 2467

✘ 3. 2466

✘ 4. 2462

Question ID : **441009622116**
Option 1 ID : **4410092442596**
Option 2 ID : **4410092442598**
Option 3 ID : **4410092442597**
Option 4 ID : **4410092442599**
Status : **Not Answered**
Chosen Option : **--**

**Q.17** **Study the given pattern carefully and select the number that can replace the question mark (?) in it.**




**Ans**

✔ 1. 6

✘ 2. 8

✘ 3. 12

✘ 4. 7

Question ID : **4410091766958**
Option 1 ID : **4410096967715**
Option 2 ID : **4410096967714**
Option 3 ID : **4410096967712**
Option 4 ID : **4410096967713**
Status : **Answered**
Chosen Option : **3**

HKA012733550002

**Q.18** **Seven people – A, G, M, P, T, U and V – sit in a straight-line facing north. M sits fourth to the right of U. G sits immediately to the left of U. Only A sits between T and P. V sits second to the right of P. G sits at one of the extreme ends. Who sits at the extreme right end?**

**Ans**
✔ 1. V
✘ 2. P
✘ 3. M
✘ 4. G

Question ID : **4410091766586**
Option 1 ID : **4410096966279**
Option 2 ID : **4410096966277**
Option 3 ID : **4410096966276**
Option 4 ID : **4410096966278**
Status : **Answered**
Chosen Option : **3**

**Q.19** **The longitudinal valleys lying between the Lesser Himalaya and the Shiwaliks are known as:**

**Ans**
✘ 1. Bhabar
✔ 2. Duns
✘ 3. Karewas
✘ 4. Terai

Question ID : **4410091774711**
Option 1 ID : **4410096998368**
Option 2 ID : **4410096998366**
Option 3 ID : **4410096998365**
Option 4 ID : **4410096998367**
Status : **Answered**
Chosen Option : **3**

**Q.20** **Which of the following electromagnetic waves has the highest wavelength?**

**Ans**
✔ 1. Radio Waves
✘ 2. Ultraviolet
✘ 3. X-Rays
✘ 4. Gamma Rays

Question ID : **4410091774301**
Option 1 ID : **4410096996787**
Option 2 ID : **4410096996786**
Option 3 ID : **4410096996785**
Option 4 ID : **4410096996788**
Status : **Answered**
Chosen Option : **1**

HKA012733550002

**Q.21** **Which of the following letter-number clusters will replace the question mark (?) in the given series to make it logically complete?**

**RML 8, SOK 14, TQJ 20, USI 26, ?**

**Ans**

✗ 1. UVG 30

✗ 2. VTH 30

✓ 3. VUH 32

✗ 4. UTG 32

Question ID : **4410091766812**
Option 1 ID : **4410096967151**
Option 2 ID : **4410096967149**
Option 3 ID : **4410096967148**
Option 4 ID : **4410096967150**
Status : **Answered**
Chosen Option : **3**

**Q.22** **The average weight of Mukund, Sachin and Chetan is 45 kg. If the average weight of Mukund and Sachin is 41 kg and that of Sachin and Chetan is 47 kg, then the weight of Sachin (in kg) is:**

**Ans**

✗ 1. 61

✓ 2. 41

✗ 3. 51

✗ 4. 56

Question ID : **441009894841**
Option 1 ID : **4410093533437**
Option 2 ID : **4410093533434**
Option 3 ID : **4410093533435**
Option 4 ID : **4410093533436**
Status : **Answered**
Chosen Option : **3**

HKA012733550002

**Q.23** **Figure A is related to B in a certain pattern. Following the same pattern, figure C is related to D. Study the pattern and select the figure which should be placed in place of D.**

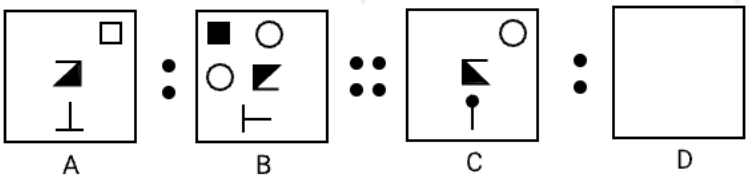


**Ans**

✗ 1.

✓ 2.

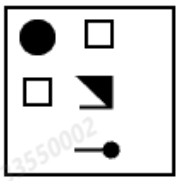

✗ 3.

✗ 4.

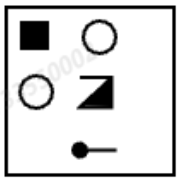

Question ID : **4410091775279**
Option 1 ID : **4410097004662**
Option 2 ID : **4410097004660**
Option 3 ID : **4410097004661**
Option 4 ID : **4410097004659**
Status : **Answered**
Chosen Option : **1**

HKA012733550002

**Q.24 The Forty-fourth Constitutional Amendment Act of India removed which right from the list of Fundamental Rights?**

Ans
✗ 1. Right to Constitutional Remedies
✗ 2. Right to Vote
✗ 3. Right to Movement
✓ 4. Right to Property

Question ID : **4410091764327**
Option 1 ID : **4410096957219**
Option 2 ID : **4410096957217**
Option 3 ID : **4410096957218**
Option 4 ID : **4410096957216**
Status : **Answered**
Chosen Option : **1**

**Q.25 A courier van initially faces South. It turns 90° to the left and travels 15 km. From there, it again turns 90° to the left and travels 12 km. It then turns 90° to the left once more, travels 10 km, and stops at point A. What is the shortest distance between the starting point and point A, and in which direction is the van facing now?**

Ans
✗ 1. 13 km, East
✗ 2. 15 km, West
✓ 3. 13 km, West
✗ 4. 15 km, East

Question ID : **4410091759470**
Option 1 ID : **4410096938024**
Option 2 ID : **4410096938026**
Option 3 ID : **4410096938025**
Option 4 ID : **4410096938027**
Status : **Answered**
Chosen Option : **1**

**Q.26 What is the primary purpose of creating folders on a computer?**

Ans
✓ 1. To organize files for easier access
✗ 2. To increase the speed of the system
✗ 3. To delete files automatically
✗ 4. To install new software

Question ID : **441009248315**
Option 1 ID : **441009967247**
Option 2 ID : **441009967245**
Option 3 ID : **441009967246**
Option 4 ID : **441009967248**
Status : **Answered**
Chosen Option : **1**

HKA012733550002

**Q.27 Who was awarded the Player of the Tournament in the Women's ODI World Cup 2025?**

**Ans**
✔ 1. Deepti Sharma
✘ 2. Harmanpreet Kaur
✘ 3. Smriti Mandhana
✘ 4. Shafali Verma

Question ID : **4410091765161**
Option 1 ID : **4410096960495**
Option 2 ID : **4410096960493**
Option 3 ID : **4410096960492**
Option 4 ID : **4410096960494**
Status : **Answered**
Chosen Option : **3**

**Q.28 Which two signs should be interchanged to make the result of the given equation an even number?**

**16 × 4 + 8 ÷ 2 − 1 = (Even number)**

**Ans**
✘ 1. × and +
✔ 2. ÷ and −
✘ 3. + and −
✘ 4. × and ÷

Question ID : **4410091766929**
Option 1 ID : **4410096967598**
Option 2 ID : **4410096967599**
Option 3 ID : **4410096967597**
Option 4 ID : **4410096967596**
Status : **Not Answered**
Chosen Option : **--**

**Q.29 The LCM of the numbers 86, 12, 42, and 36 is:**

**Ans**
✘ 1. 9984
✔ 2. 10836
✘ 3. 5418
✘ 4. 10386

Question ID : **441009279309**
Option 1 ID : **4410091085195**
Option 2 ID : **4410091085198**
Option 3 ID : **4410091085196**
Option 4 ID : **4410091085197**
Status : **Answered**
Chosen Option : **2**

HKA012733550002

**Q.30 In a certain code language, 'SOUR' is coded as '16-12-18-15' and 'NELT' is coded as '11-2-9-17'. What is the code for 'QUIZ' in that language?**

**Ans**

✗ 1. 15-18-6-23

✓ 2. 14-18-6-23

✗ 3. 14-16-6-23

✗ 4. 15-18-7-24

Question ID : **4410091766694**
Option 1 ID : **4410096966705**
Option 2 ID : **4410096966707**
Option 3 ID : **4410096966706**
Option 4 ID : **4410096966704**
Status : **Not Answered**
Chosen Option : **--**

HKA012733550002

"